몇 시와 몇 시 30분 활동지

초1 수학 · 시간과규칙 1차시

이름 ________________ 날짜 ______________

---

1 **몇 시인지 쓰세요.**





왼쪽: (   )시   오른쪽: (   )시

2 **몇 시 30분인지 쓰세요.**





왼쪽: (   )시 30분   오른쪽: (   )시 30분

3 **시곗바늘을 그리세요. 왼쪽: 4시 오른쪽: 6시 30분**

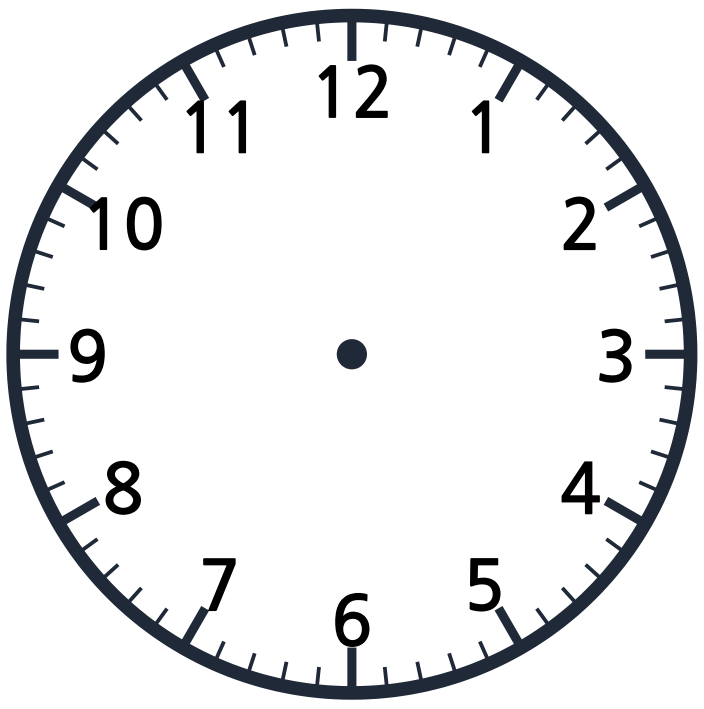

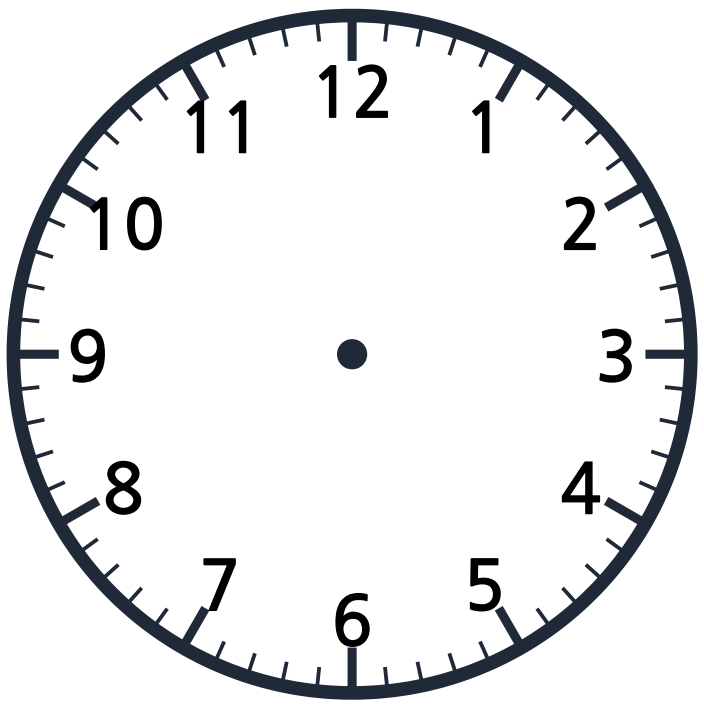

4 **긴바늘이 6을 가리키면 무엇일까요? 알맞은 것에 ☑ 하세요.**

□ 몇 시   □ 몇 시 30분   □ 몇 시 6분

다음 수업을 시작할 때

5 왼쪽 두 시계를 읽고, 오른쪽 시계에 11시를 그리세요.


12
1
2
3
4
5
6
7
8
9
10
11


12
1
2
3
4
5
6
7
8
9
10
11

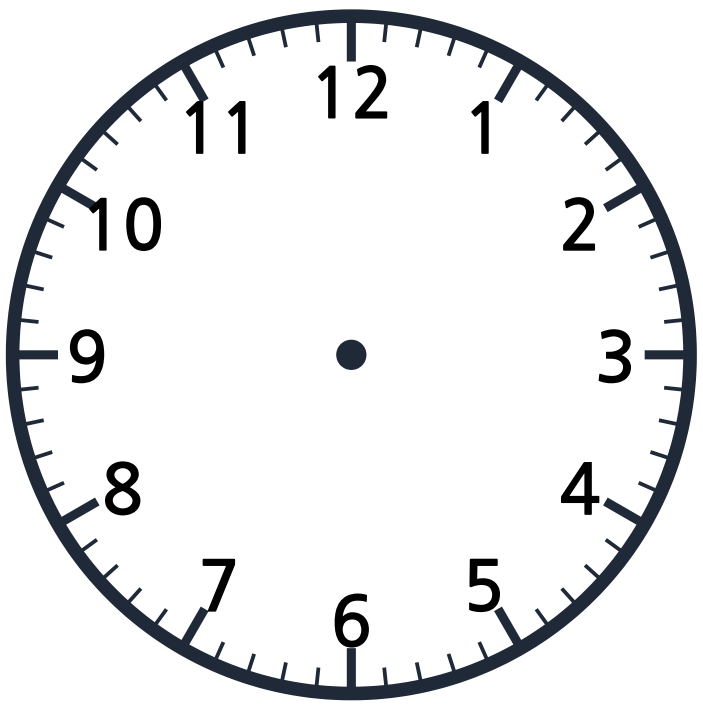
12
1
2
3
4
5
6
7
8
9
10
11

(　　　　　)　(　　　　　)